# CIE A-Level Physics

Revision Booklet

**This booklet covers:**

- Topic 13 — Gravitational Fields
- Topics 14, 15 & 16 — Thermal Physics

# Contents

**Gravitational Fields** **3**

CIE International A Level Physics

# Topic 13

# Gravitational Fields

Revision Booklet

**This booklet covers:**

- Newton's Law of Gravitation
- Gravitational Field Strength
- Gravitational Potential
- Orbital Motion & Kepler's Third Law
- Escape Velocity

# 1 Core Concepts and Definitions

### Gravitational Field

A **gravitational field** is a region of space in which a mass experiences a force due to the gravitational attraction of another mass.

- Gravitational fields are always **attractive** — there is no gravitational repulsion.
- Any mass creates a gravitational field in the space around it.
- A **test mass** placed in the field will experience a force towards the source mass.

### Radial vs Uniform Fields

- **Radial field** (e.g., around a planet): field lines point towards the centre; $g$ decreases with distance.
- **Uniform field** (e.g., near Earth's surface over small distances): field lines are parallel and equally spaced; $g$ is approximately constant at 9.81 N kg$^{-1}$.

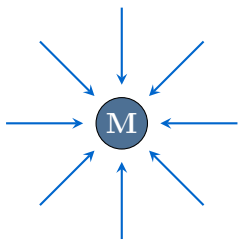


**Radial Field**

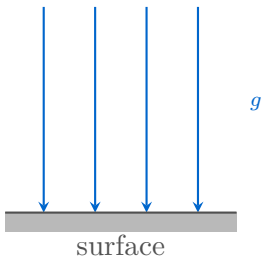


**Uniform Field**

# 2 Newton's Law of Gravitation

### Newton's Law of Gravitation

$$F = \frac{Gm_1m_2}{r^2}$$

| | |
|---|---|
| $F$ | = gravitational force between the two masses (N) |
| $G$ | = gravitational constant = $6.67 \times 10^{-11}$ N m$^2$kg$^{-2}$ |
| $m_1, m_2$ | = the two point masses (or uniform spheres) (kg) |
| $r$ | = separation between centres of mass (m) |

### Key Points

- The force is always **attractive**.
- It applies strictly to **point masses**, but also works for uniform spheres if $r$ is measured from the centre.
- $r$ is the **centre-to-centre** distance — not surface to surface.

- The force obeys an **inverse-square law**: double the distance, quarter the force.

## 3 Gravitational Field Strength

**Definition of Gravitational Field Strength $g$**

The **gravitational field strength** at a point is the gravitational force exerted per unit mass on a small test mass placed at that point.

$$g = \frac{F}{m} \qquad \text{units: N kg}^{-1} \equiv \text{m s}^{-2}$$

$g$ is a **vector** quantity, directed towards the source mass.

**Field Strength Formulae**

$$g = \frac{GM}{r^2}$$

$g$ = gravitational field strength at distance $r$ (N kg$^{-1}$)
$G$ = gravitational constant (N m$^2$ kg$^{-2}$)
$M$ = mass of body creating the field (kg)
$r$ = distance from centre of $M$ (m)

### Variation of $g$ with distance $r$

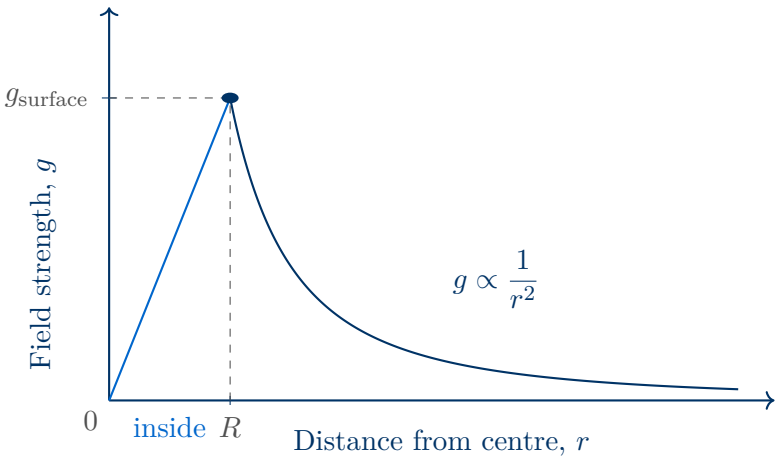


**Common Mistake**

Do not confuse $g$ (field strength, N kg$^{-1}$) with $G$ (the universal gravitational constant, N m$^2$ kg$^{-2}$). They are completely different quantities!

# 4 Gravitational Potential

**Definition of Gravitational Potential $\phi$**

The **gravitational potential** at a point is the work done per unit mass to move a small test mass from infinity to that point.

$$\phi = \frac{W}{m} \qquad \text{units: J kg}^{-1}$$

Gravitational potential is always **negative** (zero at infinity; work is done *by* gravity as mass moves inwards, so the system loses potential energy).

**Gravitational Potential Formulae**

$$\phi = -\frac{GM}{r} \qquad E_p = m\phi = -\frac{GMm}{r}$$

$\phi$ = gravitational potential at distance $r$ (J kg$^{-1}$)
$E_p$ = gravitational potential energy (J)
$G$ = $6.67 \times 10^{-11}$ N m$^2$ kg$^{-2}$
$M$ = mass of body creating the field (kg)
$r$ = distance from centre of $M$ (m)

## 4.1 Relationship Between $g$ and $\phi$

**Field Strength from Potential Gradient**

$$g = -\frac{\Delta\phi}{\Delta r}$$

**Interpreting the Gradient**

$g$ is the **negative gradient** of the potential–distance graph. On a $\phi$–$r$ graph:

- A steeper gradient $\Rightarrow$ stronger field (larger $g$)
- The gradient becomes shallower as $r$ increases $\Rightarrow$ $g$ decreases
- The area under a $g$–$r$ graph gives the change in potential $\Delta\phi$

**Graph of $\phi$ against $r$**

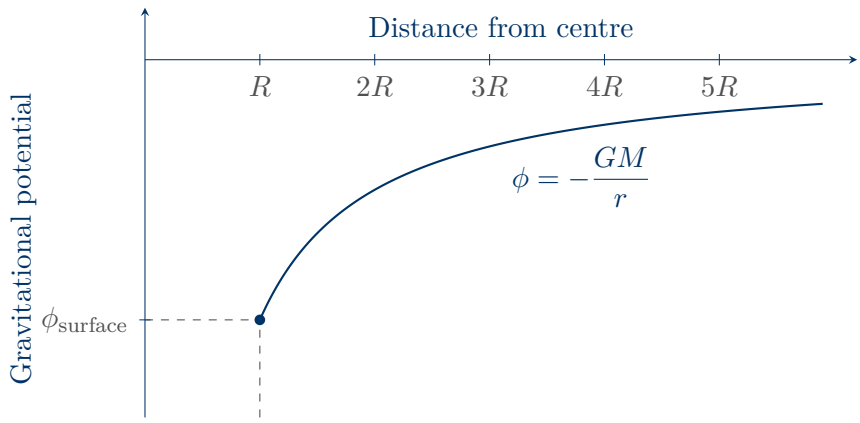


$\phi \to 0$ as $r \to \infty$

### Equipotential Surfaces

An **equipotential surface** is a surface on which the gravitational potential is the same everywhere.

- No work is done moving a mass along an equipotential surface.
- Equipotentials are always **perpendicular** to field lines.
- For a point mass (or uniform sphere), equipotentials are concentric spheres.

## 5 Circular Orbits and Satellites

For an object of mass $m$ in a circular orbit of radius $r$ around a mass $M$, the gravitational force provides the centripetal force:

### Orbital Mechanics

$$\frac{GMm}{r^2} = \frac{mv^2}{r} = mr\omega^2 = mr\left(\frac{2\pi}{T}\right)^2$$

$$\therefore \quad v = \sqrt{\frac{GM}{r}} \qquad \text{(orbital speed)}$$

$$T^2 = \frac{4\pi^2}{GM}r^3 \qquad \text{(Kepler's Third Law)}$$

### Kepler's Third Law

$$T^2 \propto r^3$$

The square of the orbital period is proportional to the cube of the orbital radius. The constant of proportionality is $\frac{4\pi^2}{GM}$.

### 5.1 Energy in Circular Orbits

**Energy of a Satellite in Circular Orbit**

$$E_k = \frac{1}{2}mv^2 = \frac{GMm}{2r} \qquad \text{(kinetic energy — always positive)}$$

$$E_p = -\frac{GMm}{r} \qquad \text{(potential energy — always negative)}$$

$$E_{total} = E_k + E_p = -\frac{GMm}{2r} \qquad \text{(total energy — always negative)}$$

As $r$ increases: $v$ decreases, $E_k$ decreases, $E_p$ increases, $E_{total}$ increases (becomes less negative).

### 5.2 Geostationary Orbits

**Geostationary Satellite**

A **geostationary** satellite has:

- An orbital period of exactly **24 hours**
- An orbit in the **equatorial plane**
- Movement in the **same direction** as Earth's rotation (west to east)
- An orbital radius of approximately $4.2 \times 10^7$ m ($\approx 36\,000$ km altitude)

It appears **stationary** relative to a point on Earth's surface.

**Uses:** satellite TV, telecommunications, weather monitoring.

## 6 Escape Velocity

**Definition of Escape Velocity**

The **escape velocity** is the minimum speed at which an object must be projected from the surface of a body so that it can escape to infinity against the gravitational field, without any further energy input.

**Escape Velocity**

Setting total energy = 0 at infinity:

$$\frac{1}{2}mv_{esc}^2 - \frac{GMm}{R} = 0$$

$$v_{esc} = \sqrt{\frac{2GM}{R}}$$

Note: $v_{esc} = \sqrt{2}\, v_{orbital}$ at the same radius.

## 7 Formula Summary Sheet

| Formula | Quantity | Units |
|---|---|---|
| $F = \dfrac{Gm_1m_2}{r^2}$ | Gravitational force | N |
| $g = \dfrac{F}{m}$ | Field strength (definition) | N kg$^{-1}$ |
| $g = \dfrac{GM}{r^2}$ | Field strength (point mass) | N kg$^{-1}$ |
| $\phi = -\dfrac{GM}{r}$ | Gravitational potential | J kg$^{-1}$ |
| $E_p = -\dfrac{GMm}{r}$ | Gravitational PE | J |
| $g = -\dfrac{\Delta\phi}{\Delta r}$ | Field from potential gradient | N kg$^{-1}$ |
| $v = \sqrt{\dfrac{GM}{r}}$ | Orbital speed | m s$^{-1}$ |
| $T^2 = \dfrac{4\pi^2r^3}{GM}$ | Kepler's Third Law | s$^2$, m$^3$ |
| $v_{esc} = \sqrt{\dfrac{2GM}{R}}$ | Escape velocity | m s$^{-1}$ |

**Constants:** $G = 6.67 \times 10^{-11}$ N m$^2$kg$^{-2}$, $M_E = 5.97 \times 10^{24}$ kg, $R_E = 6.37 \times 10^6$ m

## 8 Exam Technique and Problem-Solving Strategy

### Step-by-Step Strategy for Calculation Questions

1. **Identify** what you are asked to find.
2. **List** the quantities given; convert units if needed (e.g. days → seconds, km → m).
3. **Select** the appropriate formula.
4. **Substitute** values carefully, showing all working.
5. **Check** units and significant figures in your answer.

### Common Errors — Avoid These!

- Using **diameter** instead of radius in $g = GM/r^2$.
- Forgetting the **negative sign** in $\phi = -GM/r$.
- Not converting **hours/days to seconds** before applying Kepler's Law.
- Confusing $g$ (field strength, vector) with $\phi$ (potential, scalar).
- Saying $\phi = 0$ at the surface — it is zero only **at infinity**.

- Thinking higher orbit ⇒ faster orbital speed — it is **slower**.

## 9 Worked Examples

### Example 1 — Field Strength at Altitude

**Question:** Calculate the gravitational field strength at a height of 400 km above Earth's surface. ($M_E = 5.97 \times 10^{24}$ kg, $R_E = 6.37 \times 10^6$ m)

**Solution**

**Solution:**
$r = R_E + h = 6.37 \times 10^6 + 4.00 \times 10^5 = 6.77 \times 10^6$ m

$$g = \frac{GM}{r^2} = \frac{6.67 \times 10^{-11} \times 5.97 \times 10^{24}}{(6.77 \times 10^6)^2}$$

$$g = \frac{3.98 \times 10^{14}}{4.58 \times 10^{13}} = \mathbf{8.69}\ \text{N kg}^{-\mathbf{1}}$$

Note: this is the field strength at the ISS orbit — astronauts are *not* weightless because gravity is zero!

### Example 2 — Orbital Period Using Kepler's Third Law

**Question:** A satellite orbits Earth at a radius of $4.2 \times 10^7$ m. Calculate its orbital period.

**Solution**

**Solution:**

$$T^2 = \frac{4\pi^2 r^3}{GM} = \frac{4\pi^2 \times (4.2 \times 10^7)^3}{6.67 \times 10^{-11} \times 5.97 \times 10^{24}}$$

$$T^2 = \frac{4\pi^2 \times 7.41 \times 10^{22}}{3.98 \times 10^{14}} = 7.36 \times 10^9\ \text{s}^2$$

$$T = \sqrt{7.36 \times 10^9} = 8.58 \times 10^4\ \text{s} \approx \mathbf{23.8}\ \text{hours}$$

This is a geostationary orbit ($T \approx 24$ h).

### Example 3 — Change in Gravitational Potential Energy

**Question:** A spacecraft of mass 2500 kg is moved from the Earth's surface to an altitude of 800 km. Calculate the increase in gravitational potential energy.

**Solution**

**Solution:**
$r_1 = 6.37 \times 10^6$ m, $\quad r_2 = 6.37 \times 10^6 + 8.00 \times 10^5 = 7.17 \times 10^6$ m

$$\Delta E_p = GMm\left(\frac{1}{r_1} - \frac{1}{r_2}\right)$$

$$\Delta E_p = 6.67 \times 10^{-11} \times 5.97 \times 10^{24} \times 2500 \times \left(\frac{1}{6.37 \times 10^6} - \frac{1}{7.17 \times 10^6}\right)$$

$$\Delta E_p = 9.95 \times 10^{17} \times 1.75 \times 10^{-8} = \mathbf{1.74 \times 10^{10}}\ \text{J}$$

## 10 Practice Exam Questions

### Section A — Short Answer Questions

**Q1.** State Newton's Law of Gravitation.

*[2 marks]*

**Q2.** Define gravitational field strength and state its units.

*[2 marks]*

**Q3.** Explain why gravitational potential is always a negative quantity.

*[2 marks]*

**Q4.** The gravitational field strength at Earth's surface is 9.81 N kg$^{-1}$. Calculate the field strength at a distance of $3R_E$ from Earth's centre, where $R_E$ is Earth's radius.

*[2 marks]*

**Q5.** Two planets, X and Y, orbit the same star. Planet X has an orbital radius twice that of planet Y. Determine the ratio $T_X/T_Y$.

*[3 marks]*

## Section B — Longer Structured Questions

**Q6.** A satellite of mass $m$ orbits a planet of mass $M$ in a circular orbit of radius $r$.

(a) Show that the orbital speed of the satellite is given by $v = \sqrt{GM/r}$.

*[2 marks]*

(b) Show that the period of the orbit satisfies $T^2 = \dfrac{4\pi^2 r^3}{GM}$.

*[2 marks]*

(c) The satellite is moved to a lower orbit. Explain what happens to its:

- speed
- kinetic energy
- total energy

*[3 marks]*

**Q7.** The Moon orbits the Earth with a period of 27.3 days at a mean orbital radius of $3.84 \times 10^8$ m.

(a) Use this data to calculate the mass of the Earth.

*[3 marks]*

(b) Calculate the gravitational potential at the Moon's orbital radius.

*[2 marks]*

(c) A 75 kg astronaut travels from Earth's surface to the Moon's orbital radius. Calculate the change in gravitational potential energy.

*[3 marks]*

## 11 Mark Scheme and Answers

**Q1.** Any two masses exert an attractive force on each other [1]; the force is proportional to the product of their masses and inversely proportional to the square of their separation [1].

**Q2.** Gravitational field strength is the gravitational force per unit mass acting on a (small test) mass placed at that point [1]; units: N $kg^{-1}$ (or m $s^{-2}$) [1].

**Q3.** Gravitational potential is defined as zero at infinity [1]; work is done by gravity as mass moves from infinity inward, so the potential decreases below zero — it is always negative [1].

**Q4.** $g \propto 1/r^2$; at $3R_E$, $g = 9.81/3^2 = 9.81/9 = \mathbf{1.09}$ N kg$^{\mathbf{-1}}$ [2].

**Q5.** By Kepler's Third Law: $T^2 \propto r^3$, so $\left(\frac{T_X}{T_Y}\right)^2 = \left(\frac{2r_Y}{r_Y}\right)^3 = 8$ [2]; $\frac{T_X}{T_Y} = \sqrt{8} = \mathbf{2\sqrt{2} \approx 2.83}$ [1].

**Q6(a).** Gravitational force = centripetal force: $\frac{GMm}{r^2} = \frac{mv^2}{r}$ [1]; cancel $m$, rearrange: $v = \sqrt{GM/r}$ [1].

**Q6(b).** Substitute $v = 2\pi r/T$ into result from (a) [1]; rearrange to get $T^2 = 4\pi^2 r^3/GM$ [1].

**Q6(c).** Speed **increases** [1]; KE **increases** [1]; total energy **decreases** (becomes more negative) [1].

**Q7(a).** $T = 27.3 \times 24 \times 3600 = 2.36 \times 10^6$ s; $M = \frac{4\pi^2 r^3}{GT^2} = \frac{4\pi^2(3.84 \times 10^8)^3}{6.67 \times 10^{-11}(2.36 \times 10^6)^2}$ [1] $= \mathbf{6.02 \times 10^{24}}$ kg [2].

**Q7(b).** $\phi = -\frac{GM}{r} = -\frac{6.67 \times 10^{-11} \times 6.02 \times 10^{24}}{3.84 \times 10^8} = \mathbf{-1.05 \times 10^6}$ J kg$^{\mathbf{-1}}$ [2].

**Q7(c).** $\Delta E_p = m\Delta\phi = m(\phi_{\text{Moon orbit}} - \phi_{\text{surface}})$ [1]; $\phi_{\text{surface}} = -GM/R_E = -6.25 \times 10^7$ J kg$^{-1}$; $\Delta\phi = -1.05\times10^6 - (-6.25\times10^7) = 6.14\times10^7$ J kg$^{-1}$; $\Delta E_p = 75\times6.14\times10^7 = \mathbf{4.6 \times 10^9}$ J [2].

## 12 Revision Checklist

Use this checklist to track your understanding. Tick each box when you are confident:

| | Learning Objective | Confidence (1–3) |
|---|---|---|
| ☐ | State and apply Newton's Law of Gravitation | |
| ☐ | Define gravitational field strength; use $g = F/m$ and $g = GM/r^2$ | |
| ☐ | Sketch field line and equipotential diagrams | |
| ☐ | Define gravitational potential and explain why it is negative | |
| ☐ | Use $\phi = -GM/r$ and $E_p = -GMm/r$ | |
| ☐ | Apply the relationship $g = -\Delta\phi/\Delta r$ | |
| ☐ | Derive the expression for orbital speed | |
| ☐ | State and apply Kepler's Third Law ($T^2 \propto r^3$) | |
| ☐ | Analyse energy changes in satellite orbits | |
| ☐ | Describe the properties of a geostationary satellite | |
| ☐ | Derive and apply the formula for escape velocity | |
| ☐ | Interpret graphs of $g$ vs $r$ and $\phi$ vs $r$ | |

*Key: 1 = Need more work 2 = Getting there 3 = Confident*

**Good luck with your revision!**

Remember: understanding *why* formulas work is more powerful than memorising them. Practice drawing diagrams and deriving key results from first principles.